1

Colour the map,
minimize colours

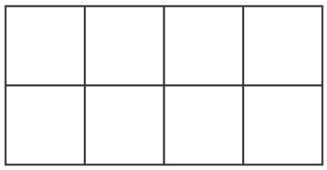

Colours used: _____

2

Colour the map,
minimize colours

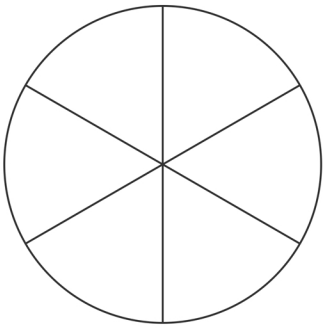

Colours used: _____

3

Colour the map,
minimize colours

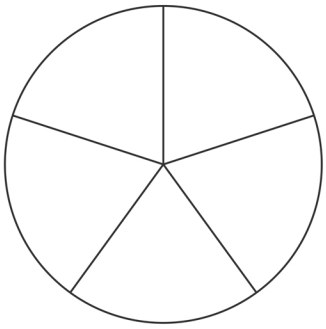

Colours used: _____

4

Colour the map,
minimize colours

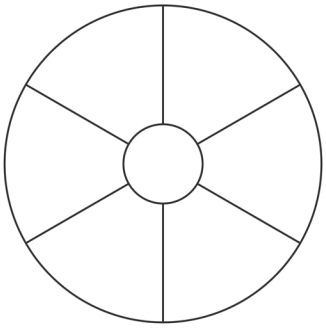

Colours used: _____

5

Colour the map, minimize colours
Can you do better than 5?

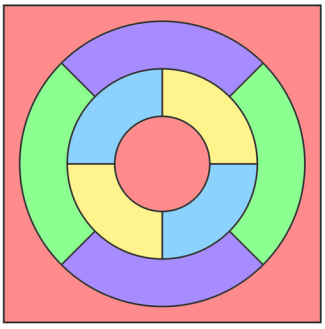

Colours used: 5

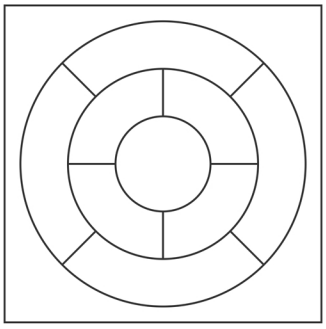

Colours used: _____

6

Colour the map,
minimize colours

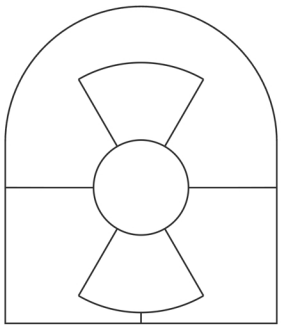

Colours used: _____

7

Create a 5-segment map (5 'countries')
which needs **2 colours** (1 is not enough)

8

Create a 5-segment map (5 'countries')
which needs exactly **3 colours** (2 is not enough, 4 is too much).

9

Create a 5-segment map (5 'countries') which needs **4 colours** (3 is not enough).
Hint: you *definitely* need 4 colours if you have 4 countries, each touching the other 3.

10

Can you create a map which needs **5 or 6 colours** (4 is not enough)?